
Problem: As seen in the figure, the beam with a span length of 2 meters is built from three equal timber parts (each have a rectangular cross section of 6cm*9cm) by means of gluing. If for the timber $\tau_{safety} = 90\ N/cm^2$ $\sigma_{safety} = 1300\ N/cm^2$ and for the glue $\tau_{safety_{glue}} = 40\ N/cm^2$ are given then find the greatest P load which can be carried safely.



1. $R_A = R_B = P/2$, $T_{max} = P/2$, max. moment ortada: $M_{max} = R_A \cdot 100 = 50P$

2. $b = 9cm$, $h = 18cm$, $I_x = \frac{bh^3}{12} = 4374\ cm^4$, $y_{max} = 9cm$

3. $\sigma = \frac{My}{I_x} = \frac{(50P)x(9)}{4374} \leq 1300 \rightarrow P \leq 12\,636\ N$

4. Ahşap kesilme: $\tau = \frac{TS}{I_x b} = \frac{(P/2)x(9x9)x(4.5)}{4374 \times 9} \leq 90N \Rightarrow P \leq 19\,440\ N$

max. kesme nâtr eksen de olur, nâtr eksenin üstündeki alan: $A' = 9.9$, $\bar{y} = 4.5cm$

4. $S = A'\bar{y} = (9x9)x(4.5)$

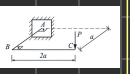
5. Tutkal kesme: $\tau = \frac{TS}{I_x b} = \frac{(P/2)x(9x4)x6}{4374 \times 9} \leq 40N \Rightarrow P \leq 9720N$

$A' = (9x4)$, $\bar{y} = 6cm \rightarrow S = (9x4)x6$

6. $P_{max} = 9720N$

BENDING WITH TORSION (EĞİLMELİ BURULMA)

Problem: 2D planar ABC bar given with the dimensions and loading case is a full circle having a diameter of d=10 cm. If P=10 kN and σ_{safety}=10000 N/cm², find the max. value of the length a according to the max. shear stress hypothesis?



M_b: burulma momenti
M_e : eğilme momenti
$\Big\}\ M_f = \sqrt{M_b^2 + M_e^2}$ [max. shear stress hypothesis]

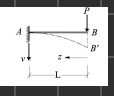
1. $M_b = Px2a = 2Pa$ $M_e = P \times a = Pa$ $\Rightarrow M_f = 2.236Pa$

2. Dolu Daire Kesit: $\sigma = \frac{M_f}{W_e} = \frac{32 M_f}{\pi D^3} \leq \sigma_{all} \Rightarrow a \leq 42.906cm$

ENERGY METHODS

Problem

The cantilever beam shown on the right hand side is loaded with the force P at the free end. Find the displacement v_B at the end B by equating the work of external forces to the elastic potential energy of the internal forces. Omit the elastic potential of the shear forces.



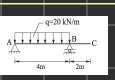
1. iç moment : $M = -Pz \rightarrow M^2 = P^2 z^2$

2. eğilmeden dolayı iç enerji : $U_i = \int_0^L \frac{M^2}{2EI} dz = \int_0^L \frac{P^2 z^2}{2EI} dz = \frac{P^2 L^3}{6EI}$
(kesme en. ihmal ediliyor)

3. dış kuvvetin yaptığı iş : $W_d = \frac{P v_B}{2}$ (statik yükleme)

4. $\frac{P^2 L^3}{6EI} = \frac{P v_B}{2} \Rightarrow v_B = PL^3/3EI$

Problem: The overhanging beam shown in the figure has a constant bending rigidity of EI. Find the displacement at the C point by employing **CASTIGLIANO**'s theorem.



1. C'de yük yok, hayali bir $P_C = 0$ yükü koyuyoruz



$q_L = 80kN$

$\Sigma M_B = 0 = A_y(4) - 80(2) + \theta(2) = 0 \Rightarrow A_y = 40 - 0.5\theta$

$\Sigma F_y = 0 = A_y + B_y - 80 - \theta \Rightarrow B_y = 40 + 0.5\theta$

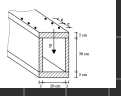
2. $0 \leq z \leq 4$; $M_1 = A_y(z) - (qz)(z/2) = -10z^2 + 40z - 0.5\theta z$, $\frac{\partial M_1}{\partial \theta} = -0.5z$

$0 \leq z \leq 2$; $M_2 = -\theta z$, $\frac{\partial M_2}{\partial \theta} = -z$

3. Castigliano : $\delta_C = \frac{1}{EI}\left[\int_0^4 M_1 \frac{\partial M_1}{\partial \theta} dz + \frac{1}{EI}\int_0^2 M_2 \frac{\partial M_2}{\partial \theta} dz\right] \Rightarrow \theta = 0$ alınır

$\delta_C = \frac{-106.67}{EI}$ → eksi işareti, yer değiştirmenin P_C nun ters yönü olduğunu gösterir

Problem: Each screws shown in the figure can sustain 1 kN shear force. Taking into account bending with shear effects, determine the distance e between two contiguous (successive) screws if a load of P=6 kN is applied to the cross section.



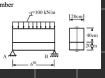
1. $I_x = \frac{26x40^3}{12} - \frac{20x30^3}{12} = 93\,666.67\ cm^4$, $T = P = 6kN$

2. Üst levha: $S = A'\bar{y} = (26x5)x(17.5)$

3. $\tau = \frac{TSx}{I_x b} = \frac{6x(26x5)x(17.5)}{93666.67 \times 6} = 0.024 kN/cm^2$

4. $\tau x e x T = 2x1 \Rightarrow e = 13.33cm$

Problem: The cross-section of the beam is made with two horizontal timbers assembled by bolts as shown in the figure given in the right hand side. The allowable shear stress for bolts is $\tau_{all} = 11000\ N/cm^2$. Find the necessary number of bolts and the distance between bolts. Diameter of the bolts is 2cm.



1. $q_L = 600kN$, $R_A = R_B = 300kN$, $T_{max} = 300kN$

2. $I_x = \frac{bh^3}{12} = \frac{20x60^3}{12} = 360\,000\ cm^4$

3. $S_x = A'\bar{y} = (20x20)x(30) = 8000\ cm^3$
(alt parça)

4. $\tau = \frac{S_x T_{max}}{I_x} = \frac{8000 \times 300000}{360\,000} = 6666.67\ N/cm$
kesme akısı

5. Civi: $A = \frac{\pi D^2}{4}$, $F_c = A\tau_{all} = 34557.52N$, $2.0.5 < F_b \Rightarrow 0.5 \leq 5.18cm \Rightarrow a = 5cm$

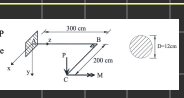
DEFORMATION IN BENDING WITH SHEAR [162-167]

$(\Delta U_g) = L'y \frac{\sigma_y}{GA} \Delta z$ — shear force; ezicilik katsayısı; elemanın uzunluğu; shear modulus; düşey kaydırma

$\Delta V_T = L'y \frac{T_y}{GF} \Delta z \Rightarrow \frac{dV_T}{dz} = L'y \frac{T_y}{GF}$ — shear force vektörü; değişimi; alan (A); shear'dan gelen yer değiştirme

$\frac{d^2v}{dz^2} = -\left[\frac{M_x}{EI_x} + \frac{L'y P}{GF}\right]$ n.b. ks.

Problem: If $M = 2 \times 10^6$ Ncm determine the maximum allowable P load by considering maximum shear stress criterion (ignore the contribution of shear force). $\sigma_{safety} = 2 \times 10^4\ N/cm^2$



1. $\frac{M_f}{W_e} = \frac{32 M_f}{\pi D^3} \leq \sigma_{safety}$, $I_0 = \frac{\pi D^4}{32} = 2034.72\ cm^4$ (burulmada) , $I_x = \frac{\pi D^4}{64} = 1017.36\ cm^4$ (eğilmede)

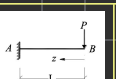
2. $M_b = 200P + 2x10^6 \rightarrow \tau = \frac{M_b r}{I_0} = \frac{(200P + 2x10^6)x6}{2034.72} = 0.59P + 5893.6$

$M_e = -300P \rightarrow \sigma = \frac{M_x}{I_x} y = \frac{(-300P)x(-6)}{1017.36} = 1.77P$

3. Max. Shear Stress C. : $\sigma_1 - \sigma_2 \leq \sigma_{safety}$, $\sigma_{1,2} = \frac{\sigma_x}{2} \pm \sqrt{\left(\frac{\sigma_x}{2}\right)^2 + \tau^2}$

$P = 5118.12N = 5.118\ kN$

Problem : Find the displacement v_B of the cantilever beam loaded with P.



1.METOT : CASTIGLIANO TEOREMİ

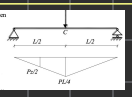
1. iç enerji : $U_i = \int_0^L \frac{M^2}{2EI} dz = \int_0^L \frac{(-Pz)^2}{2EI} dz = \frac{P^2 L^3}{6EI}$

2. $v_B = \frac{\partial U_i}{\partial P} = \frac{2PL^3}{6EI} = \frac{PL^3}{3EI}$

2. METOT : CASTIGLIANO İNTEGRALİ

1. $\delta_K = \int_0^L \frac{M}{EI} \frac{\partial M}{\partial P} dz = \int_0^L \frac{(-Pz)}{EI} \frac{\partial(-Pz)}{\partial P} dz = \frac{PL^3}{3EI}$

Problem: Find the displacement at the midpoint of the simple beam given on the right hand side.



$R_A = R_B = P/2$, $M_{max} = PL/4$

(U → δ)

1. $M = \frac{Pz}{2}$ (Sol tarafta) ; sistem simetrik, sadece yarısı hesaplanıp 2 ile çarpılır

$U_i = 2\left(\frac{1}{EI}\int_0^{L/2} \frac{M^2}{2EI} dz\right) = \frac{1}{EI}\int_0^{L/2} \left(\frac{Pz}{2}\right)^2 dz = \frac{P^2 L^3}{96EI} \Rightarrow \delta_C = \frac{\partial U_i}{\partial P} = \frac{PL^3}{48EI}$ (castigliano)

diyagramın yarısı kullanılır

2. (Direkt Castigliano) : $\delta_C = \int \frac{M}{EI} \frac{\partial M}{\partial P} dz = \frac{2}{EI}\int_0^{L/2} \left(\frac{Pz}{2}\right)\left(\frac{z}{2}\right) dz = \frac{PL^3}{48EI}$ (simetriden)

$M = Pz/2$ $\partial M/\partial P = z/2$

VIRTUAL WORK

Problem: Find the horizontal displacement of the point C of the frame of given dimensions under the loads shown in the figure by using the virtual work theorem. Omit the works of normal forces and shear forces.

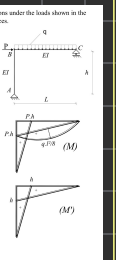
Solution: The moment diagrams for the real and fictitious loads must be drawn. For fictitious system, a unit force is affected to the point C.

Standard multiplication table will be used for the solution of this problem.

	hk	$1/2\,hk$	$1/2\,h(k_1+k_2)$	$2/3\,hk$
	$1/2\,hk$	$1/3\,hk$	$1/6\,h(k_1+2k_2)$	$1/3\,hk$
	$1/2\,hk$	$1/6\,hk$	$1/6\,h(2k_1+k_2)$	$1/3\,hk$
	$1/2\,h(i_1+i_2)k$	$1/6\,h(i_1+2i_2)k$	$1/6\,h(2i_1+i_2)$ $+i_1k_1+2i_2k_2)k$	$1/3\,h(i_1+i_2)k$
	$2/3\,hk$	$1/3\,hk$	$1/3\,h(k_1+k_2)$	$8/15\,hk$

$\delta_{Kc} = \int \frac{M \bar{M}}{EI} dz = \frac{1}{EI}\left(k\frac{Phh}{3} + \frac{LPhh}{3} + \frac{LqL^2}{3.8}h\right)$


$\delta_{Hc} = \frac{1}{EI}\left(\frac{Pb^3}{3} + \frac{Pb^2L}{3} + \frac{qL^2b}{24}\right)$



Problem: All the bars of the simple truss structure shown in the figure have the same, constant elongation rigidity EA. Find the horizontal displacement at point C and vertical displacement at point D by using **VIRTUAL WORK** equation.

Solution:

Actual loading



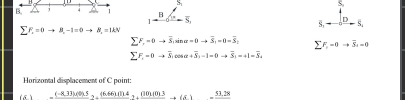
$\sum M_B = 0 \rightarrow C_y \cdot 8 - 10 \cdot 4 = 0 \rightarrow C_y = 5kN$

$\sum F_y = 0 \rightarrow B_y + C_y - 10 = 0 \rightarrow B_y = 5kN$

$\sum F_x = 0 \rightarrow S_1 \sin\alpha + 5 = 0 \rightarrow S_1 = -8.33kN = S_2$

$\sum F_y = 0 \rightarrow S_1 \cos\alpha + S_3 = 0 \rightarrow S_3 = +6.66kN = S_4$ $\sum F_x = 0 \rightarrow S_3 - 10 = 0 \rightarrow S_3 = +10$

Virtual loading



$\sum F_y = 0 \rightarrow B_y - 1 = 0 \rightarrow B_y = 1kN$

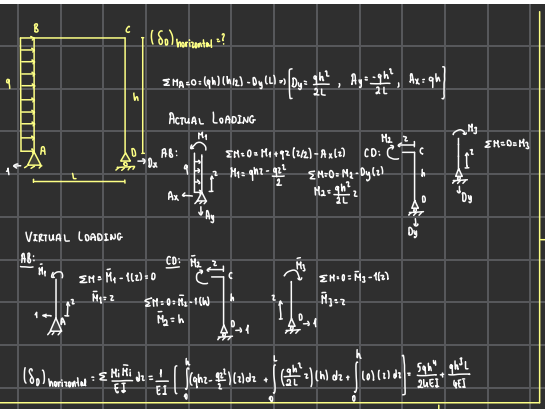
$\sum F_x = 0 \rightarrow \bar{S}_1 \sin\alpha = 0 \rightarrow \bar{S}_1 = 0 = \bar{S}_2$

$\sum F_y = 0 \rightarrow \bar{S}_1 \cos\alpha + \bar{S}_3 - 1 = 0 \rightarrow \bar{S}_3 = +1 = \bar{S}_4$

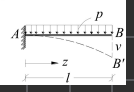
$\sum F_y = 0 \rightarrow \bar{S}_3 = 0$

Horizontal displacement of C point:

$(\delta_c)_{horizontal} = \frac{(-8.33)(0)0.5}{EA} 2 + \frac{(6.66)(1)4}{EA} 2 + \frac{(10)(0)3}{EA} \rightarrow (\delta_c)_{horizontal} = \frac{53.28}{EA}$



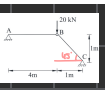
Problem Find the displacement BB' of the beam by using the total potential energy principle.



1. A noktasında: $v(0) = 0$ (deplasman), $v'(0) = 0$ (dönme) } $v(z)$ fonksiyonu en az z^2 ile başlamalı
   $v(z) = a_2 z^2 + a_3 z^3 + a_4 z^4$; $v(0) = 0$
   $v'(z) = 2a_2 z + 3a_3 z^2 + 4a_4 z^3$; $v'(0) = 0$ } sınır şartlarını sağlar
2. eğilmeden gelen iç enerji: $U = \int_0^L \frac{1}{2} EI_x (v'')^2 dz$ } toplam potansiyel enerji: $\Pi = U - W$
   yayılı yükün yaptığı dış iş: $W = \int_0^L pv(z)dz$
   $\Pi = \int_0^L \left[\frac{1}{2} EI_x (v'')^2 - pv\right] dz$
3. $v(z) = a_2 z^2 + a_3 z^3 + a_4 z^4$
   $v'(z) = 2a_2 z + 3a_3 z^2 + 4a_4 z^3$
   $v''(z) = 2a_2 + 6a_3 z + 12a_4 z^2 \rightarrow M = EI_x v''$
4. min. enerji şartı: $\frac{\partial \Pi}{\partial a_2} = 0$, $\frac{\partial \Pi}{\partial a_3} = 0$, $\frac{\partial \Pi}{\partial a_4} = 0$
   (a) $\rightarrow \frac{EI_x}{2}(8a_2\ell + 12a_3\ell^2 + 16a_4\ell^3) - \frac{p\ell^2}{3} = 0$
   (b) $\rightarrow \frac{EI_x}{2}(12a_2\ell^2 + 24a_3\ell^3 + 36a_4\ell^4) - \frac{p\ell^3}{4} = 0$
   (c) $\rightarrow \frac{EI_x}{2}(16a_2\ell^3 + 36a_3\ell^4 + \frac{264}{5}a_4\ell^5) - \frac{p\ell^5}{5} = 0$
   } $a_2 = \frac{p\ell^2}{4EI_x}$, $a_3 = -\frac{p\ell}{6EI_x}$, $a_4 = \frac{p}{24EI_x}$
5. a_2, a_3, a_4 ; $v(z)$ denkleminde yerine konulur
   $v(z) = \frac{p\ell^4}{24EI_x}\left[6\left(\frac{z}{\ell}\right)^2 - 4\left(\frac{z}{\ell}\right)^3 + \left(\frac{z}{\ell}\right)^4\right]$
   B noktasında $z = \ell$; $v(\ell) = \frac{p\ell^4}{8EI_x}$

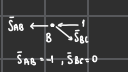
Kolon Uç Durumu	Etkin Boy (l_k)
Mafsal - Mafsal	L
Ankastre - Mafsal	0.7L
Ankastre - Ankastre	0.5L
Ankastre - Serbest	2L

Problem: Find the vertical and horizontal displacement at the B point of the system shown in the figure by employing virtual work theorem. If necessary express the results in terms of EA, GA', EI. **HINT**: You might not need some of these terms in your expressions.



$\delta = \sum \frac{N_i \bar{N}_i L_i}{EA}$

2. Yatay Yer Değiştirme



$\bar{S}_{AB} = -4$, $\bar{S}_{BC} = 0$

$(\delta_B)_{horizontal} = \frac{(-20)(-4)(4)}{EA} + \frac{(-20\sqrt{2})(0)(\sqrt{32})}{EA} = \frac{80}{EA}$

1. Düşey Yer Değiştirme



$S_{AB} = -20$kN
$S_{BC} = -20\sqrt{2}$ kN



$\bar{S}_{AB} = -1$ kN
$\bar{S}_{BC} = -\sqrt{2}$ kN

$(\delta_B)_{vertical} = \frac{(-20)(-1)(4)}{EA} + \frac{(-20\sqrt{2})(-\sqrt{2})(\sqrt{32})}{EA} = \frac{122.53}{EA}$

ELASTIC STABILITY - BUCKING

normal basınç dayanımı değil. Stabilite dayanımı kontrol edilir

$\lambda = \frac{l_k}{i}$ — burkulma boyu / atalet yarıçapı (narinlik oranı ($i^2 = I/A$)) (slenderness ratio)

Varsayılanlar: $\lambda = 100$, $E = 2.1 \times 10^3$ kN/cm² , $l = 400$cm, $l_k = 21 = 800$cm

alttı ankastre, üstü serbest gibi davranıyor

Problem 1.1:

a) Design the cross section of the column DB shown in Fig. 1.21 as square section.
b) Find the maximum working load that the column can bear by taking the safety factor as $n=2$.
c) What is the uniformly distributed load on the beam which causes to this load?

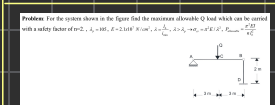
$\lambda_y = 100$, $\sigma_e = \frac{\pi^2 E}{\lambda^2}$, $E = 2.1 \cdot 10^3$ N/mm² $\lambda = \frac{l_k}{i}$, $i^2 = \frac{I_x}{A}$



Fig. 1.21

1. kare kesit için: $I_x = \frac{a \cdot a^3}{12}$, $A = a^2 \Rightarrow i = \sqrt{\frac{a^4}{12} \cdot \frac{1}{a^2}} = a/2\sqrt{3}$
   $\lambda = \frac{l_k}{i} = \frac{800}{a/2\sqrt{3}} = 100 \Rightarrow a = 23.71$ cm
2. Euler kritik perilmesi: $\sigma_k = \frac{\pi^2 E}{\lambda^2} = 20\,726.17$ N/cm²
   kritik burulma yükü: $P_K = \sigma_k A = 15\,914.47$ kN
   emniyet katsayısı: $P_{em} = P_K / n = 7957.24$ kN
3. DB'nin taşıdığı düşey kuvvet: $P_{em} = 7957.24$ kN
   $\Sigma M_A = 7957.24(6) - 8q(4) = 0 \Rightarrow q = 1491.98$ kN/m
   1. l_k bul 2. kesitleri I, A, i bul 3. $\lambda = l_k / i$ bul
   4. Euler perilmesi: $\sigma_k = \pi^2 E / \lambda^2$ 5. Kritik yük: $P_K = \sigma_k A$ 6. Emniyet k.: $P_{em} = P_K / n$

Problem For the system shown in the figure find the maximum allowable Q load which can be carried with a safety factor of n=2. , $\lambda_p = 105$, $E = 2.1 \times 10^3$ N/cm², $\lambda = \frac{l_k}{i_{min}}$, $\lambda \geq \lambda_p \rightarrow \sigma_{cr} = \pi^2 E / \lambda^2$, $P_{allowable} = \frac{\sigma_{cr} A}{n}$



1. $l = 200$cm , $l_k = 0.8 l = 160$cm , $I_{min} = \frac{1 \times 8^3}{12} = 32$cm⁴ (küçük ataletler) , $A = 24$cm² , $i_{min} = \sqrt{\frac{I_{min}}{A}} = 1.155$cm
2. $\lambda = \frac{l_k}{i_{min}} = 121$, $\lambda_p = 105 \Rightarrow \lambda > \lambda_p$: euler burkulma kullanılır
3. $P_{all} = \frac{\pi^2 E I_{min}}{n l_k^2} = 169\,021.7$ N BD kolonunun taşıyabileceği max. basınç kuvveti
4. $A_y = B_y = Q/2$, BD kolonu B mesnet tepkisini taşır $\Rightarrow \frac{Q}{2} \leq 169\,021.7 \rightarrow Q \leq 338\,043.4$ N $\Rightarrow Q_{max} = 338.04$ kN

Problem 1.2:

Find the critical load P_c for the timber column given in the right side.

$\lambda_p = 100$, $E = 10^3$ N/cm², $n = 1$

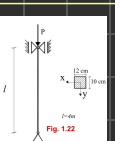


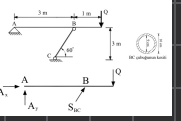
Fig. 1.22

$l_k = l = 400$cm, $I_x = \frac{12 \times 10^3}{12} = 1000$cm⁴ , $I_y = \frac{10 \times 12^3}{12} = 1440$ cm⁴
$I_{min} = 1000$cm⁴ $\rightarrow i = \sqrt{\frac{1000}{12 \times 10}} = 2.89$cm $\rightarrow \lambda = l_k / i_{min} = 138.41$
$\lambda_p = 100 \Rightarrow \lambda > \lambda_p$: euler kullanılır ($\lambda < \lambda_p$: tetmajer / inelastik)
$P_K = \frac{\pi^2 E I}{n l_k^2} = 616\,850$ N

Problem: In the system shown below, BC bar is constructed as a hollow cylinder with an outer and inner diameter of 10cm and 9cm respectively. Find the Q force which can be carried by the system with a safety factor of n=3 with respect to BC bar. $E = 21000$ kN/cm², $\lambda_p = 105$

$\lambda = \frac{l_k}{i_{min}}$, $\lambda \geq \lambda_p \rightarrow \sigma_{cr} = \pi^2 E / \lambda^2$, $\lambda \leq \lambda_p \rightarrow \sigma_{cr} = 31000 - 114\lambda$

$P_{allowable} = \frac{\sigma_{cr} A}{n}$



1. $\Sigma M_A = 0 = S_{BC} \sin(60)(3) - Q(4) \rightarrow S_{BC} = 1.54\,Q$
2. $A = \frac{\pi}{4}(10^2 - 9^2) = 14.925$ cm² , $I = \frac{\pi}{64}(10^4 - 9^4) = 168.77$cm⁴ $\rightarrow i = 3.36$cm
3. $l_k = \frac{300}{\sin(60)} = 346.4$cm , $\lambda = l_k / i = 103 \Rightarrow \lambda < \lambda_p$: inelastik burkulma formülü
4. $\lambda < \lambda_p \Rightarrow \sigma_c = 31000 - 114\lambda = 19\,230$ N/cm²
5. $n = 3$, $P_{all} = \frac{\sigma_c A}{n} = 95.41$ kN $\rightarrow S_{BC} = 1.54\,Q = 95.41 \Rightarrow Q = 62.1$ kN